Summary in Graph

Exam Summary (GOClasses CS/DA | Aptitude | Monthly Quiz 2)

Qs. Attempted:	0 (0 + 0)	Correct Marks:	0 (0 + 0)
Correct Attempts:	0 (0 + 0)	Penalty Marks:	0 (0 + 0)
Incorrect Attempts:	0 (0 + 0)	Resultant Marks:	0 (0 + 0)

Total Questions:	30 (10 + 20)
Total Marks:	50 (10 + 40)
Exam Duration:	90 Minutes
Time Taken:	0 Minutes

Individual Question Statistics

Select Metric: Marks Obtained

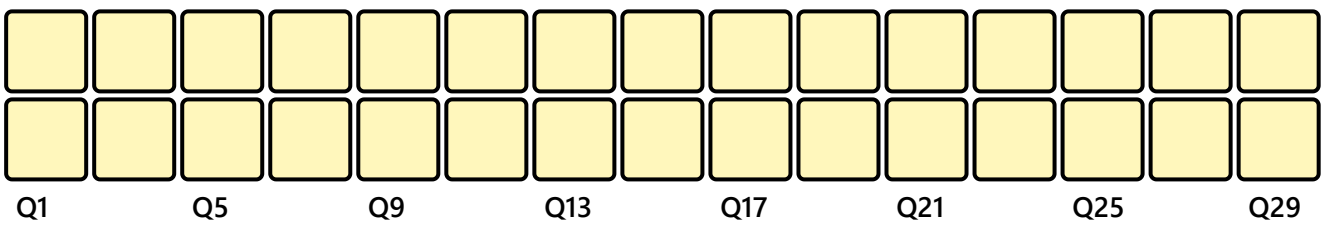

* Average Stats based on first-attempt stats of Top 10% (29) out of 294 users

EXAM RESPONSE EXAM STATS FEEDBACK

Aptitude

Q #1 Multiple Choice Type Award: 1 Penalty: 0.33 Quantitative Aptitude

If $f(x) = x^2$ and $g(x) = \log_e x$, then $f(x) + g(x)$ will be

A. Even function

Loading [MathJax]/jax/element/mml/optable/Latin1Supplement.js

B. Odd function

C. Both

D. None of the above

Your Answer: | Correct Answer: D | Not Attempted | Time taken: 00min 00sec | Discuss

Q #2 | Multiple Choice Type | Award: 1 | Penalty: 0.33 | Quantitative Aptitude

If $a:b = 2:3$ and $b:c = 5:7$, find the value of $a:b:c$?

A. $5:7:13$

B. $10:15:17$

C. $10:15:21$

D. $7:15:13$

Your Answer: | Correct Answer: C | Not Attempted | Time taken: 00min 00sec | Discuss

Q #3 | Multiple Choice Type | Award: 1 | Penalty: 0.33 | Quantitative Aptitude

If the population of a town is p in the beginning of any year then it becomes $3 + 2p$ in the beginning of the next year. If the population in the beginning of 2019 is 1000, then the population in the beginning of 2034 will be

A. $(997)2^{14} + 3$

B. $(1003)^{15} + 6$

C. $(1003)2^{15} - 3$

D. $(997)^{15} - 3$

Your Answer: | Correct Answer: C | Not Attempted | Time taken: 00min 00sec | Discuss

Q #4 | Multiple Choice Type | Award: 1 | Penalty: 0.33 | Quantitative Aptitude

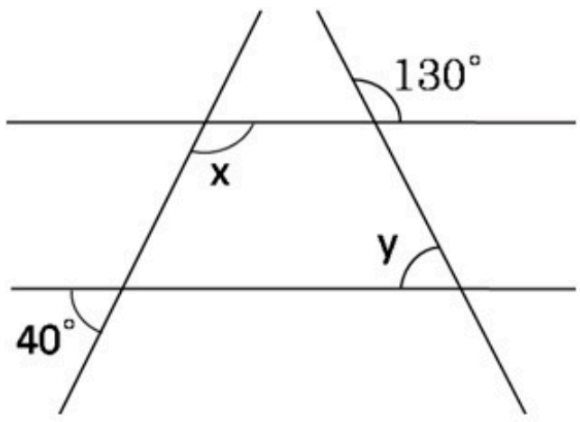

What is the average of the angle $x\&y$?

A. $90°$

Loading [MathJax]/jax/element/mml/optable/Latin1Supplement.js

B. 120°

C. 95°

D. 80°

Your Answer: | Correct Answer: C | Not Attempted | Time taken: 00min 00sec | Discuss

Q #5 | Multiple Choice Type | Award: 1 | Penalty: 0.33 | Quantitative Aptitude

The arithmetic mean of five different natural numbers is 12. The largest possible value among the numbers is

A. 12

B. 40

C. 50

D. 60

Your Answer: | Correct Answer: C | Not Attempted | Time taken: 00min 00sec | Discuss

Q #6 | Multiple Choice Type | Award: 1 | Penalty: 0.33 | Analytical Aptitude

Library : Book : : Book : _____

A. Pages

B. Copy

C. Binding

D. Cover

Your Answer: | Correct Answer: A | Not Attempted | Time taken: 00min 00sec | Discuss

Q #7 | Multiple Choice Type | Award: 1 | Penalty: 0.33 | Analytical Aptitude

Introducing a boy, a girl said, "He is the son of the daughter of the father of my uncle." How is the boy related to the girl?

A. Cousin

B. Nephew

C. Uncle

D. Son-in-law

Your Answer: | Correct Answer: A | Not Attempted | Time taken: 00min 00sec | Discuss

Loading [MathJax]/jax/element/mml/optable/Latin1Supplement.js

Q #8 Multiple Choice Type Award: 1 Penalty: 0.33 Analytical Aptitude

In a certain code 'BUILT' is written as '5#32@' and 'TRIBE' is written as \text{'}@935©\text{'}. How is \text{'RULE'} written in that code?

A. 9\#2©

B. 92\#©

C. @\#2©

D. @2\#©

Your Answer: Correct Answer: A Not Attempted Time taken: 00min 00sec Discuss

Q #9 Multiple Choice Type Award: 1 Penalty: 0.33 Verbal Aptitude

Tailgating another vehicle is unsafe and illegal. Many rear-end collisions are caused by drivers following too closely to the vehicle in front of them. The rules state that a driver must keep sufficient distance from the vehicle in front in order to stop safely and avoid a collision. Drivers should allow a minimum two seconds' gap between their vehicle and the one ahead. At sixty kilometres an hour, this equates to thirty-three metres; at a hundred, it equates to fifty-five metres. More distance is needed to safely stop in rain or poor visibility.

'More distance is needed to safely stop in rain or poor visibility.' We can infer from this that:

A. people drive faster in rain and poor visibility.

B. the writer is merely calculating on the safe side.

C. braking is more hazardous in rain and poor visibility.

D. the road rules state that this must be so.

Your Answer: Correct Answer: C Not Attempted Time taken: 00min 00sec Discuss

Q #10 Multiple Choice Type Award: 1 Penalty: 0.33 Spatial Aptitude

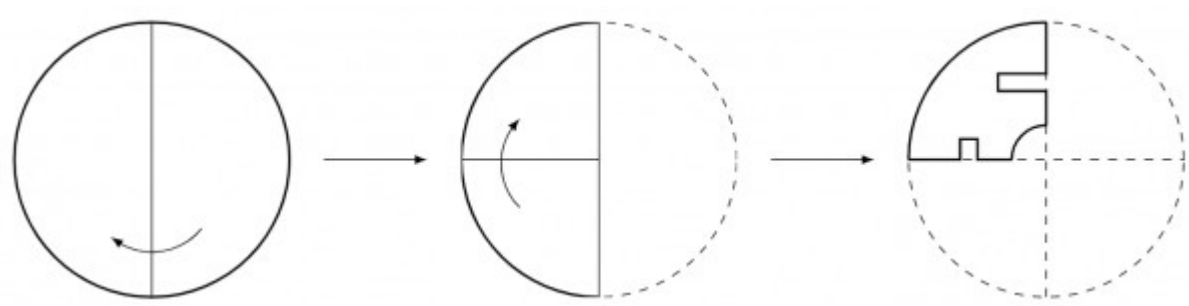

A circular sheet of paper is folded along the lines in the directions shown. The paper, after being punched in the final folded state as shown and unfolded in the reverse order of folding, will look like _____.

A. 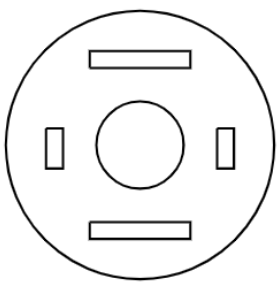

Loading [MathJax]/jax/element/mml/optable/Latin1Supplement.js

B. 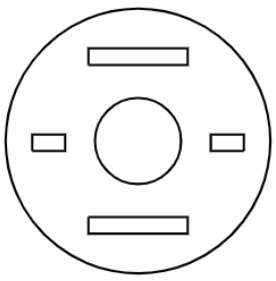

C. 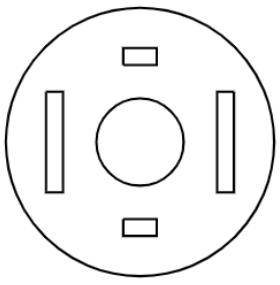

D. 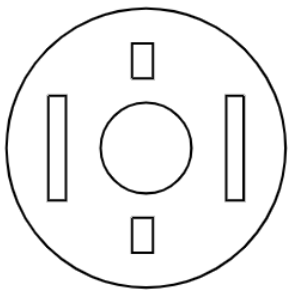

Your Answer: | Correct Answer: A | Not Attempted | Time taken: 00min 00sec | Discuss

Q #11 Multiple Choice Type | Award: 2 | Penalty: 0.67 | Quantitative Aptitude

\text{A} is x \% more than \text{B} and is x \% of the sum of \text{A} and \text{B}. What is the value of x?

A. 50 \%

B. 62 \%

C. 75 \%

D. 37 \%

Your Answer: | Correct Answer: B | Not Attempted | Time taken: 00min 00sec | Discuss

Q #12 Multiple Choice Type | Award: 2 | Penalty: 0.67 | Analytical Aptitude

If \text{‘KCLFTSB’} stands for ‘best of luck’ and \text{‘SHSWDG’} stands for 'good wishes', which of the following indicates 'ace the exam'?

A. \text{MCHTX}

B. \text{MXHTC}

C. \text{XMHCT}

D. \text{XMHTC}

Your Answer: | Correct Answer: B | Not Attempted | Time taken: 00min 00sec | Discuss

Q #13 Multiple Choice Type | Award: 2 | Penalty: 0.67 | Quantitative Aptitude

Loading [MathJax]/jax/element/mml/optable/Latin1Supplement.js

Students in a college have to choose at least two subjects from chemistry, mathematics, and physics. The number of students choosing all three subjects is 18, choosing mathematics as one of their subjects is 23 and choosing physics as one of their subjects is 25. The smallest possible number of students who could choose chemistry as one of their subjects is

A. 20

B. 22

C. 19

D. 21

Your Answer: | Correct Answer: A | Not Attempted | Time taken: 00min 00sec | Discuss

Q #14 | Multiple Choice Type | Award: 2 | Penalty: 0.67 | Verbal Aptitude

A man travels three-fifths of the distance A B at a speed of 3 a and the remaining at a speed of 2 b. If he goes from B to A and back at a speed of 5 c in the same time, then:

A. 1 / a+1 / b=1 / c

B. a+b=c

C. 1 / a+1 / b=2 / c

D. None of these

Your Answer: | Correct Answer: C | Not Attempted | Time taken: 00min 00sec | Discuss

Q #15 | Multiple Choice Type | Award: 2 | Penalty: 0.67 | Quantitative Aptitude

Sourabh borrows Rs. 25,00,000 at 12 \% compound interest from a bank and invests in shares. The investment gives him a return of 20 \% per annum and he repays Rs.5,00,000 at the end of the first year. How much does he make for himself after paying all the outstanding amounts at the end of the second year?

A. 424000

B. 356241.50

C. 525000

D. 484241.80

Your Answer: | Correct Answer: A | Not Attempted | Time taken: 00min 02sec | Discuss

Q #16 | Multiple Choice Type | Award: 2 | Penalty: 0.67 | Quantitative Aptitude

A college cricket team with 11 players consists of 4 batsmen, 3 all-rounders, 3 bowlers and 1 wicket keeper. 3 players are selected randomly. Find the probability that the selection contains a batsman, a bowler and an all-rounder.

A. \dfrac{12}{60} \\

Loading [MathJax]/jax/element/mml/optable/Latin1Supplement.js

B. \dfrac{13}{25} \\

C. \dfrac{12}{55} \\

D. \dfrac{104}{165}

Your Answer: | Correct Answer: C | Not Attempted | Time taken: 00min 00sec | Discuss

Q #17 | Multiple Choice Type | Award: 2 | Penalty: 0.67 | Quantitative Aptitude

Ten tickets numbered 1, 2, 3, \ldots 10. Six tickets are selected at random one at a time with replacement. The probability of the largest number appearing on the selected ticket being 7 is _____

A. (7^6 +1)/10^6

B. (7^6 - 6^6)/10^6

C. (7^6+6^6)/10^6

D. 6^6/10^6

Your Answer: | Correct Answer: B | Not Attempted | Time taken: 00min 00sec | Discuss

Q #18 | Multiple Choice Type | Award: 2 | Penalty: 0.67 | Quantitative Aptitude

Let \text{A} and \text{B} two solid spheres such that the surface area of \text{B} is 300\% higher than the surface area of \text{A}. The volume of \text{A} is found to be k\% lower than the volume of \text{B}. The value of k must be _____

A. 85.5

B. 92.5

C. 90.5

D. 87.5

Your Answer: | Correct Answer: D | Not Attempted | Time taken: 00min 00sec | Discuss

Q #19 | Multiple Choice Type | Award: 2 | Penalty: 0.67 | Quantitative Aptitude

The length, breadth and height of a room are in the ration 3:2:1. If the breadth and height are halved while the length is doubled, then the total area of the four walls of the room will

A. remain the same.

B. decrease by 15\%

C. decrease by 18.75\%

D. decrease by 30\%

Loading [MathJax]/jax/element/mml/optable/Latin1Supplement.js

Your Answer: | Correct Answer: D | Not Attempted | Time taken: 00min 00sec | Discuss

Q #20 | Multiple Choice Type | Award: 2 | Penalty: 0.67 | Quantitative Aptitude

If 4 Maths books are selected from 6 different Maths books and 3 English books are chosen from 5 different English books, how many ways can the seven books be arranged on a shelf if a Maths is at the beginning and an English book is in the middle of the shelf

A. 216000

B. 218000

C. 206000

D. 226000

Your Answer: | Correct Answer: A | Not Attempted | Time taken: 00min 00sec | Discuss

Q #21 | Multiple Choice Type | Award: 2 | Penalty: 0.67 | Quantitative Aptitude

The natural numbers are divided into groups as (1), (2,3,4), (5,6,7,8,9), \dots and so on. Then, the sum of the numbers in the 15 \text{th} group is equal to

A. 6090

B. 4941

C. 6119

D. 7471

Your Answer: | Correct Answer: C | Not Attempted | Time taken: 00min 00sec | Discuss

Q #22 | Multiple Choice Type | Award: 2 | Penalty: 0.67 | Analytical Aptitude

January 11, 1997 was a Sunday. What day of the week was on January 7 , 2000?

A. Sunday

B. Monday

C. Saturday

D. Thursday

Your Answer: | Correct Answer: C | Not Attempted | Time taken: 00min 00sec | Discuss

Q #23 | Multiple Choice Type | Award: 2 | Penalty: 0.67 | Analytical Aptitude

How many degrees apart are the minute hand and the hour hand of a clock at 4: 15?

Loading [MathJax]/jax/element/mml/optable/Latin1Supplement.js

A. 35.5^{\circ}

B. 30^{\circ}

C. 37.5^{\circ}

D. 32.5^{\circ}

Your Answer: | Correct Answer: C | Not Attempted | Time taken: 00min 00sec | Discuss

Q #24 | Multiple Choice Type | Award: 2 | Penalty: 0.67 | Analytical Aptitude

If 7\:\theta\: 13\: \alpha\: 3 = 60, and 12\:\theta\: 13\: \alpha\: 4 = 100, then 38\:\theta\: 39\: \alpha\: 3 =\:?

A. 313

B. 219

C. 343

D. 231

Your Answer: | Correct Answer: D | Not Attempted | Time taken: 00min 00sec | Discuss

Q #25 | Multiple Choice Type | Award: 2 | Penalty: 0.67 | Analytical Aptitude

Which number does not belong in the series below?

\qquad2, 5, 10, 17, 26, 37, 50, 64

A. 17

B. 37

C. 64

D. 26

Your Answer: | Correct Answer: C | Not Attempted | Time taken: 00min 00sec | Discuss

Q #26 | Multiple Choice Type | Award: 2 | Penalty: 0.67 | Analytical Aptitude

Each of P, Q, R, S, W, X, Y and Z has been married at most once. X and Y are married and have two children, P and Q. Z is the grandfather of the daughter, S of P. Further, Z and W are married and are parents of R.

Which one of the following must necessarily be \text{FALSE}?

A. X is the mother-in-law of R

B. P and R are not married to each other

C. P is a son of X and Y

Loading [MathJax]/jax/element/mml/optable/Latin1Supplement.js

Your Answer: | Correct Answer: B | Not Attempted | Time taken: 00min 00sec | Discuss

Q #27 | Multiple Choice Type | Award: 2 | Penalty: 0.67 | Verbal Aptitude

Tailgating another vehicle is unsafe and illegal. Many rear-end collisions are caused by drivers following too closely to the vehicle in front of them. The rules state that a driver must keep sufficient distance from the vehicle in front in order to stop safely and avoid a collision. Drivers should allow a minimum two seconds' gap between their vehicle and the one ahead. At sixty kilometres an hour, this equates to thirty-three metres; at a hundred, it equates to fifty-five metres. More distance is needed to safely stop in rain or poor visibility.

Tailgating another vehicle is unsafe because:

A. all rear-end collisions are caused by drivers following too closely to the vehicle in front.

B. it may not allow sufficient time and space to stop and avoid a collision.

C. it is against the road rules.

D. it is a reckless practice.

Your Answer: | Correct Answer: B | Not Attempted | Time taken: 00min 00sec | Discuss

Q #28 | Multiple Choice Type | Award: 2 | Penalty: 0.67 | Verbal Aptitude

The first murder ever committed in the United States occurred in September 1630, shortly after the Pilgrims arrived in Massachusetts. John Billington was the father of two sons, one of the first to settle in the new Plymouth Colony near what is today Boston, and one of the people who signed the Mayflower Compact—and he was also the colony's first murderer.

Billington, in fact, was the first person to commit any crime in the colony, as far as we know today. He was also the first to be executed by the state in the New World. Billington's crime was to shoot a man named John Newcomen, for reasons which are lost to history.

But Billington's problems had not begun on the soil of North America. He and his sons had nearly caused a mutiny aboard the Mayflower during the arduous trip across the ocean. One of his sons, in fact, fired his gun aboard the Mayflower—near an open keg of gunpowder! The flash from the gun could easily have ignited the powder, which would probably have sunk the ship.

Once in Plymouth Colony, Billington's behavior did not improve. He refused to serve any form of military duty under the leadership of Miles Standish, a duty that was seen by the colonists as part of every man's responsibilities in the New World. He was later implicated in a plot to overthrow the entire leadership of Plymouth Colony, but a lack of evidence prompted the town's leaders to let him go free.

In the end, Billington's rebellious and angry nature caught up with him. He was found guilty of the murder of John Newcomen and died in disgrace on the gallows.

Based on the information in the passage, which of the following best describes John Billington?

A. quiet and shy

B. angry and rebellious

C. clever and amusing

D. bold and patriotic

Your Answer: | Correct Answer: B | Not Attempted | Time taken: 00min 00sec | Discuss

Loading [MathJax]/jax/element/mml/optable/Latin1Supplement.js

Q #29 Multiple Choice Type | Award: 2 | Penalty: 0.67 | Verbal Aptitude

The first murder ever committed in the United States occurred in September 1630, shortly after the Pilgrims arrived in Massachusetts. John Billington was the father of two sons, one of the first to settle in the new Plymouth Colony near what is today Boston, and one of the people who signed the Mayflower Compact—and he was also the colony's first murderer.

Billington, in fact, was the first person to commit any crime in the colony, as far as we know today. He was also the first to be executed by the state in the New World. Billington's crime was to shoot a man named John Newcomen, for reasons which are lost to history.

But Billington's problems had not begun on the soil of North America. He and his sons had nearly caused a mutiny aboard the Mayflower during the arduous trip across the ocean. One of his sons, in fact, fired his gun aboard the Mayflower—near an open keg of gunpowder! The flash from the gun could easily have ignited the powder, which would probably have sunk the ship.

Once in Plymouth Colony, Billington's behaviour did not improve. He refused to serve any form of military duty under the leadership of Miles Standish, a duty that was seen by the colonists as part of every man's responsibilities in the New World. He was later implicated in a plot to overthrow the entire leadership of Plymouth Colony, but a lack of evidence prompted the town's leaders to let him go free.

In the end, Billington's rebellious and angry nature caught up with him. He was found guilty of the murder of John Newcomen and died in disgrace on the gallows.

Which of the following is NOT true of John Billington, according to the passage?

A. He had two sons.

B. He served in the military under Miles Standish.

C. He tried to lead a mutiny.

D. He attempted to overthrow the government.

Your Answer: | Correct Answer: B | Not Attempted | Time taken: 00min 00sec | Discuss

Q #30 Multiple Choice Type | Award: 2 | Penalty: 0.67 | Spatial Aptitude

Which cube cannot be made based on the unfolded cube?

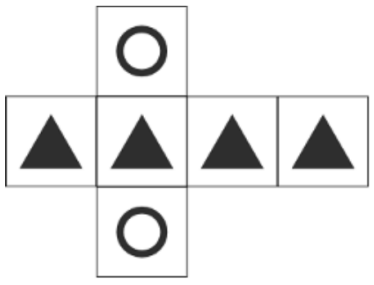

A.

B.

Loading [MathJax]/jax/element/mml/optable/Latin1Supplement.js

C.

D.

Your Answer: | Correct Answer: B | Not Attempted | Time taken: 00min 00sec | Discuss

Copyright & Stuff

Loading [MathJax]/jax/element/mml/optable/Latin1Supplement.js