Summary in Graph

Exam Summary (GOClasses CS/DA | Aptitude | Monthly Quiz 3)

Qs. Attempted:	0 (0 + 0)	Correct Marks:	0 (0 + 0)
Correct Attempts:	0 (0 + 0)	Penalty Marks:	0 (0 + 0)
Incorrect Attempts:	0 (0 + 0)	Resultant Marks:	0 (0 + 0)

Total Questions:	30 (10 + 20)
Total Marks:	50 (10 + 40)
Exam Duration:	90 Minutes
Time Taken:	0 Minutes

Individual Question Statistics

Select Metric: Marks Obtained

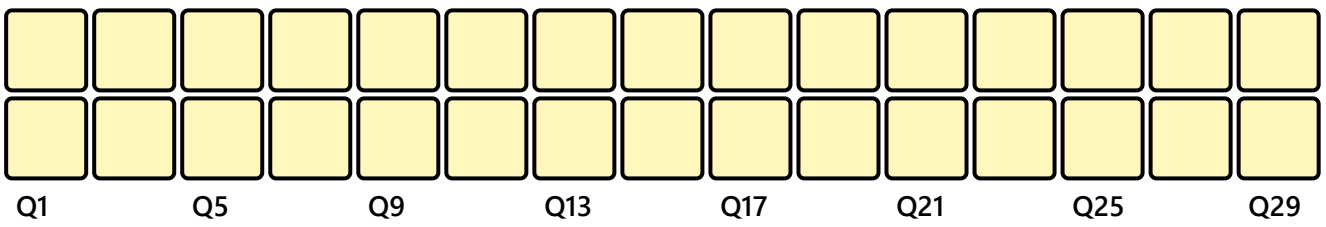

* Average Stats based on first-attempt stats of Top 10% (19) out of 192 users

EXAM RESPONSE | EXAM STATS | FEEDBACK

Aptitude

Q #1 | Multiple Choice Type | Award: 1 | Penalty: 0.33 | Quantitative Aptitude

Population and GDP for 50 African Countries

Gross Domestic Product	Population: More Than 50 Million	20–50 Million	10–20 Million	2–10 Million	Less Than 2 Million	Total
More Than $100 Billion	3	2	0	0	0	5
$20–100 Billion	1	7	1	1	0	10
$10–20 Billion	1	3	3	3	3	13
Less Than $10 Billion	0	0	7	8	7	22
Total	5	12	11	12	10	50

Among the 50 African countries represented in the chart above, how many countries have a population between 10 million and 50 million people and a GDP between $\$10$ billion and $\$20$ billion?

A. 6

B. 7

C. 13

D. 16

Your Answer: | Correct Answer: A | Not Attempted | Time taken: 00min 00sec | Discuss

Q #2 | Multiple Choice Type | Award: 1 | Penalty: 0.33 | Quantitative Aptitude

The sequence S is defined by $S_n = S_{n-1} + S_{n-2} - 1$ for each integer $n \geq 3$. If $S_1 = 11$ and $S_3 = 10$, what is the value of S_5 ?

A. 0

B. 9

C. 10

D. 18

Your Answer: | Correct Answer: D | Not Attempted | Time taken: 00min 00sec | Discuss

Q #3 | Multiple Choice Type | Award: 1 | Penalty: 0.33 | Quantitative Aptitude

A box contains five cards, numbered $1, 2, 3, 4$, and 5 . Three cards are selected randomly without replacement from the box. What is the probability that 4 is the largest value selected?

A. $\frac{1}{10}$

B. $\frac{1}{5}$

C. $\frac{3}{10}$

D. $\frac{2}{5}$

Your Answer: | Correct Answer: C | Not Attempted | Time taken: 00min 00sec | Discuss

Q #4 Multiple Choice Type Award: 1 Penalty: 0.33 Quantitative Aptitude

Alicia, Brenda, and Colby were the candidates in a recent election for student president. The pie chart below shows how the votes were distributed among the three candidates. If Brenda received 36 votes, then how many votes were cast altogether?

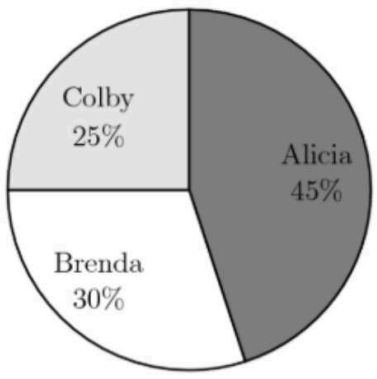

A. 120

B. 84

C. 100

D. 106

Your Answer: Correct Answer: A Not Attempted Time taken: 00min 02sec Discuss

Q #5 Multiple Choice Type Award: 1 Penalty: 0.33 Quantitative Aptitude

All of Marcy's marbles are blue, red, green, or yellow. One third of her marbles are blue, one fourth of them are red, and six of them are green. What is the smallest number of yellow marbles that Marcy could have?

A. 1

B. 2

C. 3

D. 4

Your Answer: Correct Answer: D Not Attempted Time taken: 00min 00sec Discuss

Q #6 Multiple Choice Type Award: 1 Penalty: 0.33 Quantitative Aptitude

A solid figure is formed by stacking identical cubes in the shape of a pyramid: the bottom layer has 4×4 cubes, the next layer 3×3, then 2×2, and the top layer 1×1. How many cubes are there in total?

A. 24

B. 30

C. 35

D. 40

Your Answer: | Correct Answer: B | Not Attempted | Time taken: 00min 00sec | Discuss

Q #7 | Multiple Choice Type | Award: 1 | Penalty: 0.33 | Quantitative Aptitude

On Monday, a class has 8 girls and 20 boys. On Tuesday, a certain number of girls joined the class just as twice that number of boys left the class, changing the ratio of girls to boys to 7 to 4. How many boys left the class on Tuesday?

A. 5

B. 6

C. 11

D. 12

Your Answer: | Correct Answer: D | Not Attempted | Time taken: 00min 00sec | Discuss

Q #8 | Multiple Choice Type | Award: 1 | Penalty: 0.33 | Quantitative Aptitude

A tank that was 40% full of oil was emptied into a 20-gallon bucket. If the oil fills 35% of the bucket's volume, then what is the total capacity of the tank in gallons?

A. 8.75

B. 15

C. 16

D. 17.5

Your Answer: | Correct Answer: D | Not Attempted | Time taken: 00min 00sec | Discuss

Q #9 | Multiple Choice Type | Award: 1 | Penalty: 0.33 | Quantitative Aptitude

If 150 were increased by 60% and then decreased by $y\%$, the result would be 192.
What is the value of y?

A. 20

B. 28

C. 32

D. 72

Your Answer: | Correct Answer: A | Not Attempted | Time taken: 00min 00sec | Discuss

Q #10 | Multiple Choice Type | Award: 1 | Penalty: 0.33 | Quantitative Aptitude

Kaleana shows her test score to Quay, Marty and Shana, but the others keep theirs hidden. Quay thinks, "At least two of us have the same score." Marty thinks, "I didn't get the lowest score." Shana thinks, "I didn't get the highest score." List the scores from lowest to highest for Marty (M), Quay (Q) and Shana (S).

A. S, Q, M

B. Q, M, S

C. Q, S, M

D. M, S, Q

Your Answer: | Correct Answer: A | Not Attempted | Time taken: 00min 00sec | Discuss

Q #11 | Multiple Choice Type | Award: 2 | Penalty: 0.67 | Quantitative Aptitude

The mean of a set of five different positive integers is 15. The median is 18. The maximum possible value of the largest of these five integers is

A. 19

B. 24

C. 32

D. 35

Your Answer: | Correct Answer: D | Not Attempted | Time taken: 00min 00sec | Discuss

Q #12 | Multiple Choice Type | Award: 2 | Penalty: 0.67 | Quantitative Aptitude

Population and GDP for 50 African Countries

Gross Domestic Product	Population: More Than 50 Million	20–50 Million	10–20 Million	2–10 Million	Less Than 2 Million	Total
More Than $100 Billion	3	2	0	0	0	5
$20–100 Billion	1	7	1	1	0	10
$10–20 Billion	1	3	3	3	3	13
Less Than $10 Billion	0	0	7	8	7	22
Total	5	12	11	12	10	50

Among the 50 African countries represented in the chart above, what percent of the countries have a population of less than 20 million people and a GDP of less than $20 billion?

A. 38%

B. 44%

C. 62%

D. 68%

Your Answer: | Correct Answer: C | Not Attempted | Time taken: 00min 00sec | Discuss

Q #13 | Multiple Choice Type | Award: 2 | Penalty: 0.67 | Quantitative Aptitude

Population and GDP for 50 African Countries

Gross Domestic Product	Population: More Than 50 Million	20–50 Million	10–20 Million	2–10 Million	Less Than 2 Million	Total
More Than $100 Billion	3	2	0	0	0	5
$20–100 Billion	1	7	1	1	0	10
$10–20 Billion	1	3	3	3	3	13
Less Than $10 Billion	0	0	7	8	7	22
Total	5	12	11	12	10	50

According to the chart above, which of the following is greatest?

A. The number of countries with more than $\$10$ billion of GDP and a population of less than 20 million

B. The number of countries with less than $\$20$ billion of GDP and a population of more than 10 million

C. The number of countries with more than $\$20$ billion of GDP

D. The number of countries with less than $\$100$ billion of GDP and a population of less than 10 million

Your Answer: | Correct Answer: D | Not Attempted | Time taken: 00min 00sec | Discuss

Q #14 | Multiple Choice Type | Award: 2 | Penalty: 0.67 | Quantitative Aptitude

Population and GDP for 50 African Countries

Gross Domestic Product	Population: More Than 50 Million	20–50 Million	10–20 Million	2–10 Million	Less Than 2 Million	Total
More Than $100 Billion	3	2	0	0	0	5
$20–100 Billion	1	7	1	1	0	10
$10–20 Billion	1	3	3	3	3	13
Less Than $10 Billion	0	0	7	8	7	22
Total	5	12	11	12	10	50

Approximately what percent of the African countries in the chart above that have a GDP between $\$10$ billion and $\$20$ billion also have a population between 10 million and 20 million?

A. 6%

B. 23%

C. 26%

D. 30%

Your Answer: | Correct Answer: B | Not Attempted | Time taken: 00min 00sec | Discuss

Q #15 | Multiple Choice Type | Award: 2 | Penalty: 0.67 | Quantitative Aptitude

Nineteenth-century painter Albert Bierstadt's view of his artistic skill as a vehicle for self-promotion was evident in his choices of style and subject matter. From the debut of his career with the exhibition of Lake Lucerne (1856), he developed a fixed style that was most easily recognisable for its size; the largest of the 636 paintings on display at the exhibition, it was over three metres wide. This, coupled with the artist's ability to represent the optimistic feeling in America during the westward expansion, is what led to Bierstadt's explosive growth in popularity during the 1860s. Bierstadt deliberately appealed to those rich patrons, railroad tycoons and financiers whose nearest substitute to making the arduous journey out West was to purchase a hyperbolised replica of a Western vista.

But trends following the Civil War produced a drastic shift away from the adventurous optimism of the pre-war era and toward a more subdued appreciation for the details of American life. In this new social context, the paintings now seemed too decadent, too gaudy, for the new philosophy taking root in the country following the horrors of war. As one commentator in 1866 put it, Bierstadt's work "may impose upon the senses, but does not affect the heart." In a sense, then, that same American pride upon which Bierstadt had capitalised to advance his success was now, in its fickleness, the source of his downfall.

According to the passage, the new philosophy taking root in America after the Civil War would be best described as

A. justifiable pessimism

B. somber realism

C. restrained minimalism

D. prideful idealism

Your Answer: | Correct Answer: B | Not Attempted | Time taken: 00min 00sec | Discuss

Q #16 | Multiple Choice Type | Award: 2 | Penalty: 0.67 | Quantitative Aptitude

Nineteenth-century painter Albert Bierstadt's view of his artistic skill as a vehicle for self-promotion was evident in his choices of style and subject matter. From the debut of his career with the exhibition of Lake Lucerne (1856), he developed a fixed style that was most easily recognisable for its size; the largest of the 636 paintings on display at the exhibition, it was over three metres wide. This, coupled with the artist's ability to represent the optimistic feeling in America during the westward expansion, is what led to Bierstadt's explosive growth in popularity during the 1860s. Bierstadt deliberately appealed to those rich patrons, railroad tycoons and financiers whose nearest substitute to making the arduous journey out West was to purchase a hyperbolised replica of a Western vista.

But trends following the Civil War produced a drastic shift away from the adventurous optimism of the pre-war era and toward a more subdued appreciation for the details of American life. In this new social context, the paintings now seemed too decadent, too gaudy, for the new philosophy taking root in the country following the horrors of war. As one commentator in 1866 put it, Bierstadt's work "may impose upon the senses, but does not affect the heart." In a sense, then, that same American pride upon which Bierstadt had capitalised to advance his success was now, in its fickleness, the source of his downfall.

The passage quotes the commentator (lines 14-15) primarily in order to

A. offer evidence supporting a claim

B. point out an erroneous assertion

C. provide expert testimony

D. highlight a controversy

Your Answer: | Correct Answer: A | Not Attempted | Time taken: 00min 00sec | Discuss

Q #17 | Multiple Choice Type | Award: 2 | Penalty: 0.67 | Quantitative Aptitude

Nineteenth-century painter Albert Bierstadt's view of his artistic skill as a vehicle for self-promotion was evident in his choices of style and subject matter. From the debut of his career with the exhibition of Lake Lucerne (1856), he developed a fixed style that was most easily recognisable for its size; the largest of the 636 paintings on display at the exhibition, it was over three metres wide. This, coupled with the artist's ability to represent the optimistic feeling in America during the westward expansion, is what led to Bierstadt's explosive growth in popularity during the 1860s. Bierstadt deliberately appealed to those rich patrons railroad tycoons and financiers whose nearest substitute to making the arduous journey out West was to purchase a hyperbolised replica of a Western vista.

But trends following the Civil War produced a drastic shift away from the adventurous optimism of the pre-war era and toward a more subdued appreciation for the details of American life. In this new social context, the paintings now seemed too decadent, too gaudy, for the new philosophy taking root in the country following the horrors of war. As one commentator in 1866 put it, Bierstadt's work "may impose upon the senses, but does not affect the heart." In a sense, then, that same American pride upon which Bierstadt had capitalised to advance his success was now, in its fickleness, the source of his downfall.

All of the following are mentioned as contributors to Bierstadt's success: EXCEPT

A. the dimensions of his paintings

B. his ability to convey auspicious feelings

C. subdued appreciation for the details of American life

D. catering to the preferences of the wealthy

Your Answer: | Correct Answer: C | Not Attempted | Time taken: 00min 00sec | Discuss

Q #18 | Multiple Choice Type | Award: 2 | Penalty: 0.67 | Quantitative Aptitude

History textbooks in the United States are far too fact-based and even have the ability to make students feel as though all history is made up of "Quick-Facts" and diagrams, not dynamic events to be critically analysed. Furthermore, it is often the case that textbooks are given undue authority in determining the curriculum; many teachers simply "teach the book".

This is particularly disturbing when considering the fact that state committees for choosing textbooks often treat them, in the words of Sandra Wong, "more like encyclopaedias of facts than as cultural products that convey values and perspectives" when deciding which ones to pick. In her article "Evaluating the Content of Textbooks: Public Interests and Professional Authority", Wong discusses how textbook committees are rarely concerned with the actual substance of the writing in the textbooks they evaluate and are far more interested in things like "charts, illustrations, and introductory outlines".

What, then, would be a better tool to use in the high school classroom than textbooks or timelines for creating an effective learning environment that could reflect the dynamic nature of historical study? Out of all the various alternatives – going to plays, hearing speakers, listening to music, using interactive online resources, elucidating connections to students' personal lives by going to local history museums or having students write autobiographical essays, etc. – the most promising is, by far, film. Movies are a magnificent way

into history for even the most resistant naysayer of historical study. Film is a hugely popular medium with endless numbers of historically based works, everything from documentaries to dramas that not only present facts, but Dramatise the human relations behind those facts.

The main critique presented against the use of historical film in the classroom is, of course, the existence of rampant inaccuracies and biases laced throughout these films, not to mention the agendas of the filmmakers themselves. However, some historians believe that these seeming flaws are actually part of the reason why film is an ideal teaching tool. Not only does it allow students to see history come to life and thus interact with it dynamically, as to make history immediately accessible to a modern audience because of the techniques used in filmmaking, but it can also foster deep critical thinking skills if instructors lead dialogues after film viewings about the inaccuracies, the biases, and all of the things that make the film not just a record of a historical event but also a reflection of the modern moment.

According to the passage, a problem with state committee textbook selection is

A. the lack of education of the committee members

B. misplaced priorities

C. the dominance of larger states

D. valuing perspectives instead of facts

Your Answer: | Correct Answer: B | Not Attempted | Time taken: 00min 00sec | Discuss

Q #19 | Multiple Choice Type | Award: 2 | Penalty: 0.67 | Quantitative Aptitude

Square $ABCD$ has sides of length 3. Segments CM and CN divide the square's area into three equal parts. How long is segment CM ?

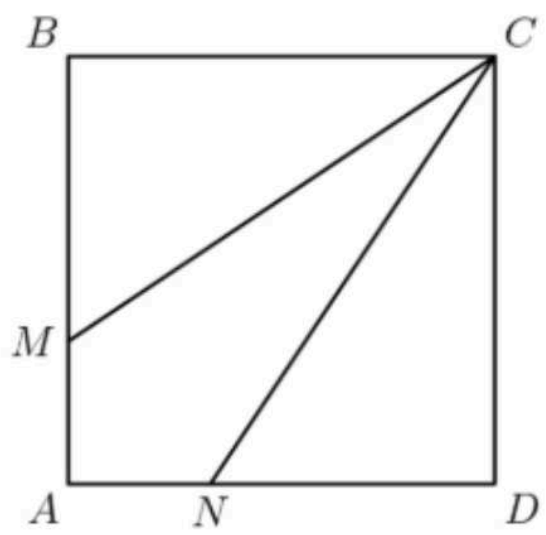

A. $\sqrt{10}$

B. $\sqrt{12}$

C. $\sqrt{13}$

D. $\sqrt{14}$

Your Answer: | Correct Answer: C | Not Attempted | Time taken: 00min 00sec | Discuss

Q #20 | Multiple Choice Type | Award: 2 | Penalty: 0.67 | Quantitative Aptitude

Isosceles right triangle ABC encloses a semicircle of area 2π. The circle has its center O on hypotenuse $\overline{AB}$ and is tangent to sides $\overline{AC}$ and $\overline{BC}$. What is the area of triangle ABC ?

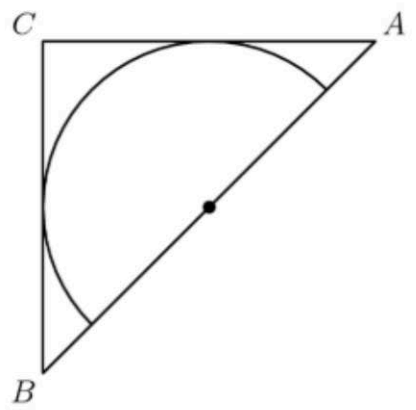

A. 6

B. 8

C. 3π

D. 10

Your Answer: | Correct Answer: B | Not Attempted | Time taken: 00min 00sec | Discuss

Q #21 | Multiple Choice Type | Award: 2 | Penalty: 0.67 | Quantitative Aptitude

If $f(x) = x^2$, which of the following is equal to $f(m+n) + f(m-n)$?

A. $m^2 + n^2$

B. $m^2 - n^2$

C. $2m^2 + 2n^2$

D. $2m^2 - 2n^2$

Your Answer: | Correct Answer: C | Not Attempted | Time taken: 00min 00sec | Discuss

Q #22 | Multiple Choice Type | Award: 2 | Penalty: 0.67 | Quantitative Aptitude

In the figure below, $ABCD$ is a rectangle with sides of length $AB = 5$ inches and $AD = 3$ inches. Rectangle $ABCD$ is rotated 90° clockwise around the midpoint of side DC to give a second rectangle. What is the total area, in square inches, covered by the two overlapping rectangles?

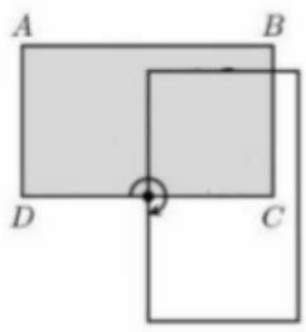

A. 21

B. 22.25

C. 23

D. 23.75

Your Answer: | Correct Answer: D | Not Attempted | Time taken: 00min 00sec | Discuss

Q #23 | Multiple Choice Type | Award: 2 | Penalty: 0.67 | Quantitative Aptitude

Ara and Shea were once the same height. Since then Shea has grown 20% while Ara has grown half as many inches as Shea. Shea is now 60 inches tall. How tall, in inches, is Ara now?

A. 55

B. 51

C. 52

D. 54

Your Answer: | Correct Answer: A | Not Attempted | Time taken: 00min 00sec | Discuss

Q #24 | Multiple Choice Type | Award: 2 | Penalty: 0.67 | Quantitative Aptitude

What is the units digit of $19^{19} + 99^{99}$?

A. 0

B. 1

C. 2

D. 8

Your Answer: | Correct Answer: D | Not Attempted | Time taken: 00min 00sec | Discuss

Q #25 | Multiple Choice Type | Award: 2 | Penalty: 0.67 | Quantitative Aptitude

There is a list of seven numbers. The average of the first four numbers is 5, and the average of the last four numbers is 8. If the average of all seven numbers is $6\frac{4}{7}$, then the number common to both sets of four numbers is

A. $5\frac{3}{7}$

B. 6

C. $6\frac{4}{7}$

D. 7

Your Answer: | Correct Answer: B | Not Attempted | Time taken: 00min 00sec | Discuss

Q #26 Multiple Choice Type | Award: 2 | Penalty: 0.67 | Quantitative Aptitude

Harold made a plum pie to take on a picnic. He was able to eat only $\frac{1}{4}$ of the pie, and he left the rest for his friends. A moose came by and ate $\frac{1}{3}$ of what Harold left behind. After that, a porcupine ate $\frac{1}{3}$ of what the moose left behind. How much of the original pie still remained after the porcupine left?

A. $\frac{1}{12}$

B. $\frac{1}{6}$

C. $\frac{1}{4}$

D. $\frac{1}{3}$

Your Answer: | Correct Answer: D | Not Attempted | Time taken: 00min 00sec | Discuss

Q #27 Multiple Choice Type | Award: 2 | Penalty: 0.67 | Quantitative Aptitude

A cube is painted on all six faces and then cut into 64 smaller cubes of equal size. How many of these smaller cubes have exactly two painted faces?

A. 24

B. 30

C. 35

D. 40

Your Answer: | Correct Answer: A | Not Attempted | Time taken: 00min 00sec | Discuss

Q #28 Multiple Choice Type | Award: 2 | Penalty: 0.67 | Quantitative Aptitude

Along the route of a bicycle race, 7 water stations are evenly spaced between the start and finish lines, as shown in the figure below. There are also 2 repair stations evenly spaced between the start and finish lines. The 3rd water station is located 2 miles after the 1st repair station. How long is the race in miles?

A. 8

B. 16

C. 24

D. 48

Your Answer: | Correct Answer: D | Not Attempted | Time taken: 00min 00sec | Discuss

Q #29 | Multiple Choice Type | Award: 2 | Penalty: 0.67 | Quantitative Aptitude

Team A and team B are raising money for a charity event. The ratio of money collected by team A to money collected by team B is $5:6$. The ratio of the number of students on team A to the number of students on team B is $2:3$. What is the ratio of money collected per student on team A to money collected per student on team B?

A. $4:5$

B. $5:4$

C. $5:6$

D. $5:9$

Your Answer: | Correct Answer: B | Not Attempted | Time taken: 00min 00sec | Discuss

Q #30 | Multiple Choice Type | Award: 2 | Penalty: 0.67 | Quantitative Aptitude

After completing a speed training, Alyosha translates Russian literature into English at a rate of 10 more than twice as many words per hour as he was able to translate before the training. If he was previously able to translate 10 words per minute, how many words can he now translate in an hour?

A. 30

B. 70

C. 610

D. $1,210$

Your Answer: | Correct Answer: D | Not Attempted | Time taken: 00min 00sec | Discuss

Copyright & Stuff