Summary in Graph

Exam Summary (GOClasses CS/DA | Aptitude | Monthly Quiz 5)

Qs. Attempted:	0 (0 + 0)	Correct Marks:	0 (0 + 0)
Correct Attempts:	0 (0 + 0)	Penalty Marks:	0 (0 + 0)
Incorrect Attempts:	0 (0 + 0)	Resultant Marks:	0 (0 + 0)

Total Questions:	30 (10 + 20)
Total Marks:	50 (10 + 40)
Exam Duration:	90 Minutes
Time Taken:	0 Minutes

Individual Question Statistics

Select Metric: Marks Obtained

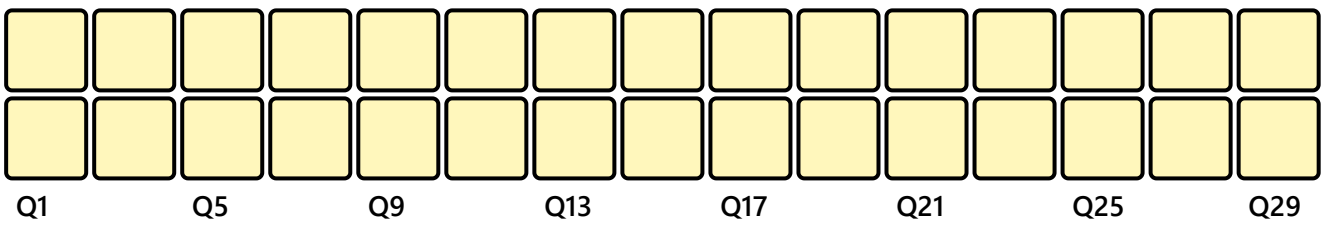

* Average Stats based on first-attempt stats of Top 10% (16) out of 158 users

EXAM RESPONSE EXAM STATS FEEDBACK

Aptitude

Q #1 Multiple Choice Type Award: 1 Penalty: 0.33 Quantitative Aptitude

Directions: Study the following pie charts carefully and answer the questions given beside

An engineering college has six trades in which a total of 2400 students study in the year 2019. The pie chart-1 shows the distribution of students in various trades.

Pie Chart - 1 : Distribution of students in various trades

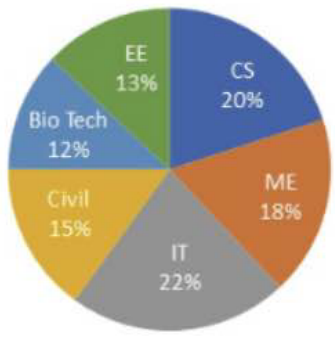

Students in the college are from various cities of India. Out of a total of 2400 students, 1800 students are from five cities, as indicated in pie chart-2.

Pie Chart - 2 : Students from five different cities

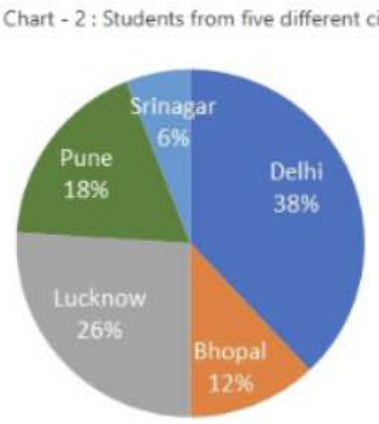

In the new session in 2020, a new batch of 80 students took admission in CS, 60 in ME, 35 in Civil, 12 in Bio tech and 13 in EE. No new admission happened in the IT trade. Percentage of students in IT trade in year 2020 would be? (to the nearest integer)

A. 15%

B. 18%

C. 20%

D. WILL REMAIN 22% SINCE NO STUDENT TOOK ADMISSION IN IT

Your Answer: | Correct Answer: C | Not Attempted | Time taken: 00min 00sec | Discuss

Q #2 | Multiple Choice Type | Award: 1 | Penalty: 0.33 | Quantitative Aptitude

In the 16th century, an age of great marine and terrestrial exploration, Ferdinand Magellan led the first expedition to sail around the world. As a young Portuguese noble, he served the king of Portugal, but he became involved in the quagmire of political intrigue at court and lost the king's favour. After he was dismissed from service by the king of Portugal, he offered to serve the future Emperor Charles V of Spain.

A papal decree of 1493 had assigned all land in the New World west of 50 degrees W longitude to Spain and all the land east of that line to Portugal. Magellan offered to prove that the East Indies fell under Spanish authority. On September $20, 1519$, Magellan set sail from Spain with five ships. More than a year later, one of these ships was exploring the topography of South America in search of a water route across the continent. This ship sank, but the remaining four ships searched along the southern peninsula of South America. Finally they found the passage they sought near 50 degrees $\mathbf{S}$ latitude. Magellan named this passage the Strait of All Saints, but today it is known as the Strait of Magellan.

One ship deserted while in this passage and returned to Spain, so fewer sailors were privileged to gaze at that

first panorama of the Pacific Ocean. Those who remained crossed the meridian now known as the International Date Line in the early spring of 1521 after 98 days on the Pacific Ocean. During those long days at sea, many of Magellan's men died of starvation and disease.
Later, Magellan became involved in an insular conflict in the Philippines and was killed in a tribal battle. Only one ship and 17 sailors under the command of the Basque navigator Elcano survived to complete the westward journey to Spain and thus prove once and for all that the world is round, with no precipice at the edge.

Four of the ships sought a passage along a southern _____.

A. COAST

B. INLAND

C. BODY OF LAND WITH WATER ON THREE SIDES

D. BORDER

Your Answer: | Correct Answer: C | Not Attempted | Time taken: 00min 00sec | Discuss

Q #3 | Multiple Choice Type | Award: 1 | Penalty: 0.33 | Quantitative Aptitude

A chess king is said to attack all the squares one step away from it, horizontally, vertically, or diagonally. For instance, a king on the center square of a 3×3 grid attacks all 8 other squares, as shown below. Suppose a white king and a black king are placed on different squares of a 3×3 grid so that they do not attack each other (in other words, not right next to each other). In how many ways can this be done?

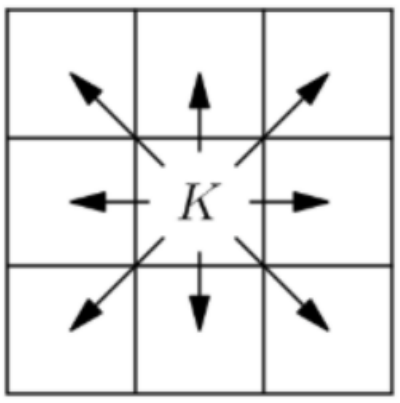

A. 20

B. 24

C. 27

D. 32

Your Answer: | Correct Answer: D | Not Attempted | Time taken: 00min 00sec | Discuss

Q #4 | Multiple Choice Type | Award: 1 | Penalty: 0.33 | Quantitative Aptitude

Arrange the following sentences in the correct order:

A. During the 24-hour darkness of the austral autumn and winter, the South Pole Telescope operates nonstop under impeccable conditions for astronomy.

B. The atmosphere is thin (the pole is more than $9,300$ feet above sea level, $9,000$ of which are ice), stable (due to the absence of the heating and cooling effects of a rising and setting Sun) and the pole has some of the calmest winds on Earth, blowing almost always from the same direction.

C. "The South Pole has the harshest environment on Earth, but also the most benign," says William Holzapfel, a University of California at Berkeley astrophysicist, the on-site lead researcher at the South Pole Telescope.

D. From an astronomer's perspective, not until the Sun goes down and stays down-March through September- does the South Pole get "benign."

A. $CDAB$

B. $DBAC$

C. $CDBA$

D. $ABCD$

Your Answer: | Correct Answer: A | Not Attempted | Time taken: 00min 00sec | Discuss

Q #5 | Multiple Choice Type | Award: 1 | Penalty: 0.33 | Quantitative Aptitude

A telephone number has the form $\mathrm{ABC}-\mathrm{DEF}-\mathrm{GHIJ}$, where each letter represents a different digit. The digits in each part of the number are in decreasing order; that is, $A>B>C, D>E>F$, and $G>H>I>J$. Furthermore, D, E, and F are consecutive even digits; G, H, I, and J are consecutive odd digits; and $A+B+C=9$. Find A.

A. 4

B. 5

C. 6

D. 8

Your Answer: | Correct Answer: D | Not Attempted | Time taken: 00min 00sec | Discuss

Q #6 | Multiple Choice Type | Award: 1 | Penalty: 0.33 | Quantitative Aptitude

Ms. Carroll promised that anyone who got all the multiple-choice questions right on the upcoming exam would receive an A on the exam. Which one of these statements necessarily follows logically?

A. If Lewis did not receive an A, then he got all of the multiple-choice questions wrong.

B. If Lewis did not receive an A, then he got at least one of the multiple-choice questions wrong.

C. If Lewis got at least one of the multiple-choice questions wrong, then he did not receive an A.

D. If Lewis received an A, then he got all of the multiple-choice questions right.

Your Answer: | Correct Answer: B | Not Attempted | Time taken: 00min 00sec | Discuss

Q #7 | Multiple Choice Type | Award: 1 | Penalty: 0.33 | Quantitative Aptitude

The Fibonacci sequence $1, 1, 2, 3, 5, 8, 13, 21, \ldots$ starts with two $\mathbf{1}$ s, and each term afterwards is the sum of its two predecessors. Which one of the ten digits is the last to appear in the units position of a number in the Fibonacci sequence?

A. 0

B. 4

C. 6

D. 7

Your Answer: | Correct Answer: D | Not Attempted | Time taken: 00min 01sec | Discuss

Q #8 | Multiple Choice Type | Award: 1 | Penalty: 0.33 | Quantitative Aptitude

How many positive integers b have the property that $\log_b 729$ is a positive integer?

A. 0

B. 1

C. 2

D. 4

Your Answer: | Correct Answer: D | Not Attempted | Time taken: 00min 00sec | Discuss

Q #9 | Multiple Choice Type | Award: 1 | Penalty: 0.33 | Quantitative Aptitude

When the mean, median, and mode of the list

$$10, 2, 5, 2, 4, 2, x$$

are arranged in increasing order, they form a non-constant arithmetic progression. What is the sum of all possible real values of x ?

A. 3

B. 6

C. 9

D. 20

Your Answer: | Correct Answer: D | Not Attempted | Time taken: 00min 00sec | Discuss

Q #10 | Multiple Choice Type | Award: 1 | Penalty: 0.33 | Quantitative Aptitude

Let f be a function for which $f\left(\frac{x}{3}\right) = x^2 + x + 1$. Find the sum of all values of z for which $f(3z) = 7$.

A. $-\frac{1}{3}$

B. $-\frac{1}{9}$

C. 0

D. $\frac{5}{9}$

Your Answer: | Correct Answer: B | Not Attempted | Time taken: 00min 00sec | Discuss

Q #11 Multiple Choice Type | Award: 2 | Penalty: 0.67 | Quantitative Aptitude

A circle centred at O has radius 1 and contains the point A. The segment AB is tangent to the circle at A and $\angle AOB = \theta$. If point C lies on $\overline{OA}$ and $\overline{BC}$ bisects $\angle ABO$, then $OC =$

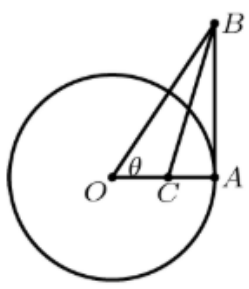

A. $\sec^2\theta - \tan\theta$

B. $\frac{1}{2}$

C. $\frac{\cos^2\theta}{1+\sin\theta}$

D. $\frac{1}{1+\sin\theta}$

Your Answer: | Correct Answer: D | Not Attempted | Time taken: 00min 00sec | Discuss

Q #12 Multiple Choice Type | Award: 2 | Penalty: 0.67 | Quantitative Aptitude

Through a point on the hypotenuse of a right triangle, lines are drawn parallel to the legs of the triangle so that the triangle is divided into a square and two smaller right triangles. The area of one of the two small right triangles is m times the area of the square. The ratio of the area of the other small right triangle to the area of the square is

A. $\frac{1}{2m+1}$

B. m

C. $1-m$

D. $\frac{1}{4m}$

Your Answer: | Correct Answer: D | Not Attempted | Time taken: 00min 00sec | Discuss

Q #13 Multiple Choice Type | Award: 2 | Penalty: 0.67 | Quantitative Aptitude

Triangle ABC has side lengths $AB = 5$, $BC = 6$, and $AC = 7$. Two bugs start simultaneously from A and crawl along the sides of the triangle in opposite directions at the same speed. They meet at point D. What is BD ?

A. 1

B. 2

C. 3

D. 4

Your Answer: | Correct Answer: D | Not Attempted | Time taken: 00min 00sec | Discuss

Q #14 | Multiple Choice Type | Award: 2 | Penalty: 0.67 | Quantitative Aptitude

A teacher gave a test to a class in which 10% of the students are juniors and 90% are seniors. The average score on the test was 84. The juniors all received the same score, and the average score of the seniors was 83. What score did each of the juniors receive on the test?

A. 85

B. 88

C. 93

D. 94

Your Answer: | Correct Answer: C | Not Attempted | Time taken: 00min 00sec | Discuss

Q #15 | Multiple Choice Type | Award: 2 | Penalty: 0.67 | Quantitative Aptitude

Which of the following describes the set of values of a for which the curves $x^2 + y^2 = a^2$ and $y = x^2 - a$ in the real xy-plane intersect at exactly 3 points?

A. $a = \frac{1}{4}$

B. $\frac{1}{4}$

C. $a > \frac{1}{4}$

D. $a > \frac{1}{2}$

Your Answer: | Correct Answer: D | Not Attempted | Time taken: 00min 00sec | Discuss

Q #16 | Multiple Choice Type | Award: 2 | Penalty: 0.67 | Quantitative Aptitude

The marked price of a book was 30% less than the suggested retail price. Alice purchased the book for half the marked price at a Fiftieth Anniversary sale. What percent of the suggested retail price did Alice pay?

A. 25%

B. 30%

C. 35%

D. 60%

Your Answer: | Correct Answer: C | Not Attempted | Time taken: 00min 00sec | Discuss

Q #17 Numerical Type | Award: 2 | Penalty: 0 | Quantitative Aptitude

Each of the 2001 students at a high school studies either Spanish or French, and some study both. The number who study Spanish is between 80 percent and 85 percent of the school population, and the number who study French is between 30 percent and 40 percent. Let m be the smallest number of students who could study both languages, and let M be the largest number of students who could study both languages. Find $M - m$.

Your Answer: | Correct Answer: 298 | Not Attempted | Time taken: 00min 00sec | Discuss

Q #18 Numerical Type | Award: 2 | Penalty: 0 | Quantitative Aptitude

The triangular plot of ACD lies between Aspen Road, Brown Road and a railroad. Main Street runs east and west, and the railroad runs north and south. The numbers in the diagram indicate distances in miles. The width of the railroad track can be ignored. How many square miles are in the plot of land ACD?

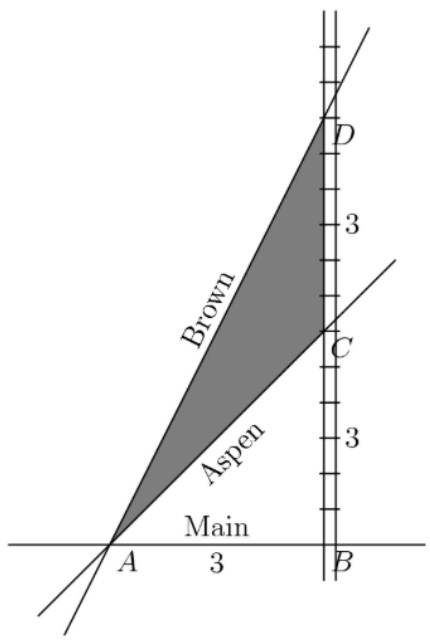

Your Answer: | Correct Answer: 4.5 | Not Attempted | Time taken: 00min 00sec | Discuss

Q #19 Multiple Choice Type | Award: 2 | Penalty: 0.67 | Quantitative Aptitude

Figures $0, 1, 2,$ and 3 consist of $1, 5, 13,$ and 25 nonoverlapping unit squares, respectively. If the pattern were continued, how many non-overlapping unit squares would there be in figure 100?

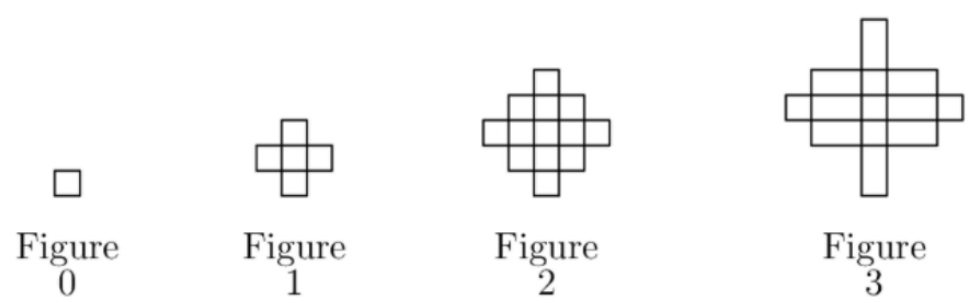

A. 10401

B. 19801

C. 20201

D. 39801

Your Answer: | Correct Answer: C | Not Attempted | Time taken: 00min 00sec | Discuss

Q #20 | Multiple Choice Type | Award: 2 | Penalty: 0.67 | Quantitative Aptitude

A roll of tape is 4 inches in diameter and is wrapped around a ring that is 2 inches in diameter. A cross section of the tape is shown in the figure below. The tape is 0.015 inches thick. If the tape is completely unrolled, approximately how long would it be? Round your answer to the nearest 100 inches.

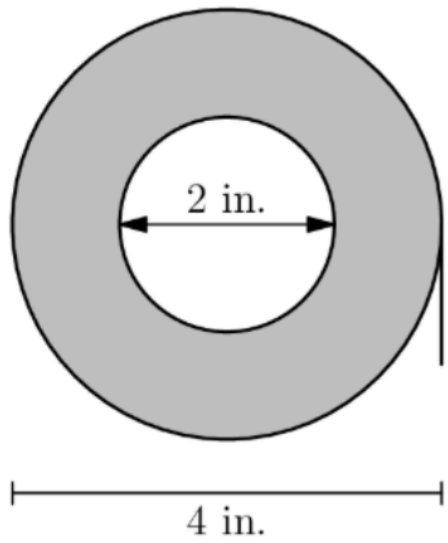

A. 300

B. 600

C. 1200

D. 1500

Your Answer: | Correct Answer: B | Not Attempted | Time taken: 00min 00sec | Discuss

Q #21 | Multiple Choice Type | Award: 2 | Penalty: 0.67 | Quantitative Aptitude

Mount Vesuvius, a volcano located between the ancient Italian cities of Pompeii and Herculaneum, has received much attention because of its frequent and destructive eruptions. The most famous of these eruptions occurred in A.D. 79.
The volcano had been inactive for centuries. There was little warning of the coming eruption, although one account unearthed by archaeologists says that a hard rain and a strong wind had disturbed the celestial calm during the preceding night. Early the next morning, the volcano poured a huge river of molten rock down upon Herculaneum, completely burying the city and filling the harbor with coagulated lava.

Meanwhile, on the other side of the mountain, cinders, stone and ash rained down on Pompeii. Sparks from the burning ash ignited the combustible rooftops quickly. Large portions of the city were destroyed in the conflagration. Fire, however, was not the only cause of destruction. Poisonous sulphuric gases saturated the air. These heavy gases were not buoyant in the atmosphere and therefore sank toward the earth and suffocated people.

Over the years, excavations of Pompeii and Herculaneum have revealed a great deal about the behaviour of the volcano. By analysing data, much as a zoologist dissects an animal specimen, scientists have concluded that the eruption changed large portions of the area's geography. For instance, it turned the Sarno River from its course and raised the level of the beach along the Bay of Naples. Meteorologists studying these events have also concluded that Vesuvius caused a huge tidal wave that affected the world's climate.

In addition to making these investigations, archaeologists have been able to study the skeletons of victims by using distilled water to wash away the volcanic ash. By strengthening the brittle bones with acrylic paint, scientists have been able to examine the skeletons and draw conclusions about the diet and habits of the

residents. Finally, the excavations at both Pompeii and Herculaneum have yielded many examples of classical art, such as jewellery made of bronze, which is an alloy of copper and tin. The eruption of Mount Vesuvius and its tragic consequences have provided everyone with a wealth of data about the effects that volcanoes can have on the surrounding area. Today, volcanologists can locate and predict eruptions, saving lives and preventing the destruction of other cities and cultures.

Herculaneum and its harbour were buried under _____ lava.

A. LIQUID

B. SOLID

C. FLOWING

D. GAS

Your Answer: | Correct Answer: B | Not Attempted | Time taken: 00min 00sec | Discuss

Q #22 | Multiple Choice Type | Award: 2 | Penalty: 0.67 | Quantitative Aptitude

Mount Vesuvius, a volcano located between the ancient Italian cities of Pompeii and Herculaneum, has received much attention because of its frequent and destructive eruptions. The most famous of these eruptions occurred in A.D. 79.
The volcano had been inactive for centuries. There was little warning of the coming eruption, although one account unearthed by archaeologists says that a hard rain and a strong wind had disturbed the celestial calm during the preceding night. Early the next morning, the volcano poured a huge river of molten rock down upon Herculaneum, completely burying the city and filling the harbour with coagulated lava.

Meanwhile, on the other side of the mountain, cinders, stone and ash rained down on Pompeii. Sparks from the burning ash ignited the combustible rooftops quickly. Large portions of the city were destroyed in the conflagration. Fire, however, was not the only cause of destruction. Poisonous sulphuric gases saturated the air. These heavy gases were not buoyant in the atmosphere and therefore sank toward the earth and suffocated people.

Over the years, excavations of Pompeii and Herculaneum have revealed a great deal about the behaviour of the volcano. By analyzing data, much as a zoologist dissects an animal specimen, scientists have concluded that the eruption changed large portions of the area's geography. For instance, it turned the Sarno River from its course and raised the level of the beach along the Bay of Naples. Meteorologists studying these events have also concluded that Vesuvius caused a huge tidal wave that affected the world's climate.

In addition to making these investigations, archaeologists have been able to study the skeletons of victims by using distilled water to wash away the volcanic ash. By strengthening the brittle bones with acrylic paint, scientists have been able to examine the skeletons and draw conclusions about the diet and habits of the residents. Finally, the excavations at both Pompeii and Herculaneum have yielded many examples of classical art, such as jewellery made of bronze, which is an alloy of copper and tin. The eruption of Mount Vesuvius and its tragic consequences have provided everyone with a wealth of data about the effects that volcanoes can have on the surrounding area. Today, volcanologists can locate and predict eruptions, saving lives and preventing the destruction of other cities and cultures.
The poisonous gases were not _____ in the air.

A. ABLE TO FLOAT

B. VISIBLE

C. ABLE TO EVAPORATE

D. INVISIBLE

Your Answer: | Correct Answer: A | Not Attempted | Time taken: 00min 00sec | Discuss

Q #23 | Multiple Choice Type | Award: 2 | Penalty: 0.67 | Quantitative Aptitude

After school, Maya and Naomi headed to the beach, 6 miles away. Maya decided to bike, while Naomi took a bus. The graph below shows their journeys, indicating the time and distance travelled. What was the difference, in miles per hour, between Naomi's and Maya's average speeds?

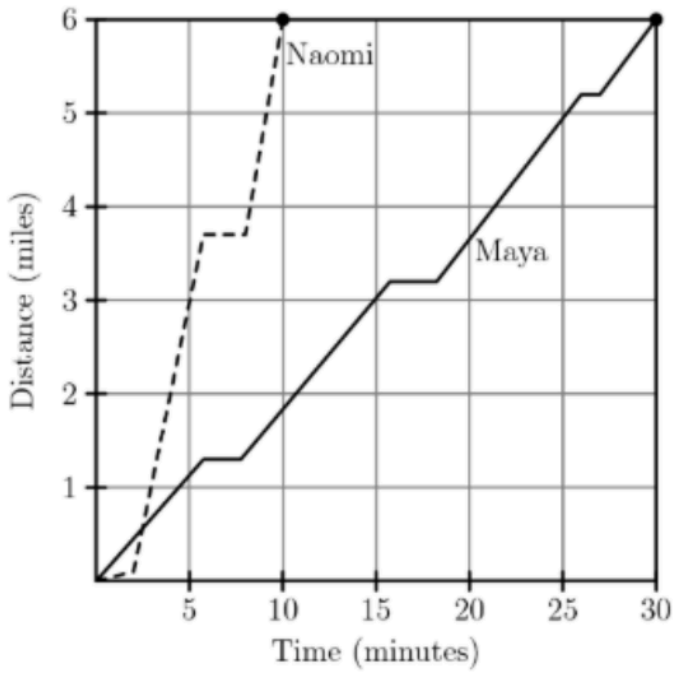

A. 6

B. 12

C. 18

D. 24

Your Answer: | Correct Answer: D | Not Attempted | Time taken: 00min 00sec | Discuss

Q #24 | Multiple Choice Type | Award: 2 | Penalty: 0.67 | Quantitative Aptitude

Directions : Study the following pie charts carefully and answer the questions given beside.
An engineering college has six trades in which a total of 2400 students study in the year 2019. The pie chart-1 shows the distribution of students in various trades.

Pie Chart - 1 : Distribution of students in various trades

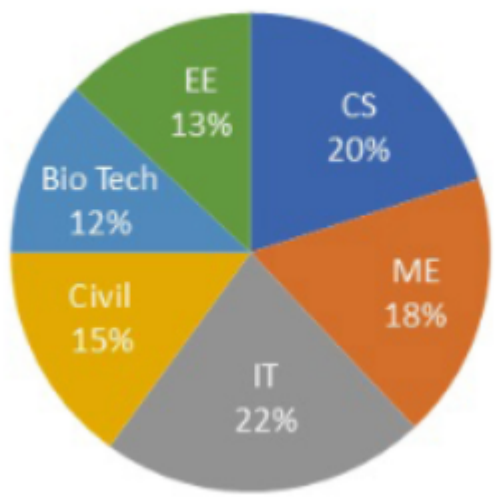

Students in the college are from various cities of India. Out of a total of 2400 students. 1800 students are from five cities, as indicated in pie chart-2.

Pie Chart - 2 : Students from five different cities

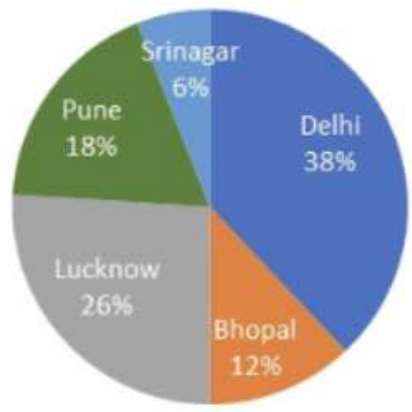

Average students in CS, ME, and biotech trades are what percentage more/less than the number of students in rest of the trades together?

A. $66\frac{2}{3}\%$ LESS

B. $66\frac{2}{3}\%$MORE

C. $33\frac{1}{3}\%$ LESS

D. 0%

Your Answer: | Correct Answer: A | Not Attempted | Time taken: 00min 00sec | Discuss

Q #25 | Multiple Choice Type | Award: 2 | Penalty: 0.67 | Quantitative Aptitude

The point $P=(1,2,3)$ is reflected in the xy-plane, then its image Q is rotated by 180° about the x -axis to produce R, and finally, R is translated by 5 units in the positive- y direction to produce S. What are the coordinates of S ?

A. $(1,7,-3)$

B. $(-1,7,-3)$

C. $(1,3,3)$

D. $(-1,3,3)$

Your Answer: | Correct Answer: C | Not Attempted | Time taken: 00min 00sec | Discuss

Q #26 | Multiple Choice Type | Award: 2 | Penalty: 0.67 | Quantitative Aptitude

One morning each member of Angela's family drank an 8-ounce mixture of coffee with milk. The amounts of coffee and milk varied from cup to cup but were never zero. Angela drank a quarter of the total amount of milk and a sixth of the total amount of coffee. How many people are in the family?

A. 3

B. 4

C. 5

D. 6

Your Answer: | Correct Answer: C | Not Attempted | Time taken: 00min 00sec | Discuss

Q #27 | Multiple Choice Type | Award: 2 | Penalty: 0.67 | Quantitative Aptitude

Jerry and Silvia wanted to go from the southwest corner of a square field to the northeast corner. Jerry walked due east and then due north to reach the goal, but Silvia headed northeast and reached the goal walking in a straight line. Which of the following is closest to how much shorter Silvia's trip was compared to Jerry's trip?

A. 30%

B. 40%

C. 50%

D. 60%

Your Answer: | Correct Answer: A | Not Attempted | Time taken: 00min 00sec | Discuss

Q #28 | Multiple Choice Type | Award: 2 | Penalty: 0.67 | Quantitative Aptitude

Joy has 30 thin rods, one each of every integer length from $1\ \mathrm{cm}$ through $30\ \mathrm{cm}$. She places the rods with lengths $3\ \mathrm{cm}$, $7\ \mathrm{cm}$, and $15\ \mathrm{cm}$ on a table. She then wants to choose a fourth rod that she can put with these three to form a quadrilateral with positive area. How many of the remaining rods can she choose as the fourth rod?

A. 16

B. 17

C. 18

D. 19

Your Answer: | Correct Answer: B | Not Attempted | Time taken: 00min 00sec | Discuss

Q #29 | Multiple Choice Type | Award: 2 | Penalty: 0.67 | Quantitative Aptitude

Assume that, for a certain school, it is true that

I: Some students are not honest.

II: All fraternity members are honest.

A necessary conclusion is:

A. Some students are fraternity members.

B. Some fraternity members are not students.

C. Some students are not fraternity members.

D. No fraternity member is a student.

Your Answer: | Correct Answer: C | Not Attempted | Time taken: 00min 00sec | Discuss

Q #30 | Multiple Choice Type | Award: 2 | Penalty: 0.67 | Quantitative Aptitude

Yesterday Han drove 1 hour longer than Ian at an average speed 5 miles per hour faster than Ian. Jan drove 2 hours longer than Ian at an average speed 10 miles per hour faster than Ian. Han drove 70 miles more than Ian. How many more miles did Jan drive than Ian?

A. 120

B. 130

C. 140

D. 150

Your Answer: | Correct Answer: D | Not Attempted | Time taken: 00min 00sec | Discuss

Copyright & Stuff