Summary in Graph

Exam Summary (GO Classes CS | Digital Logic | Boolean Algebra | Weekly Quiz 1)

Qs. Attempted:	1 (1 + 0)	Correct Marks:	1 (1 + 0)
Correct Attempts:	1 (1 + 0)	Penalty Marks:	0 (0 + 0)
Incorrect Attempts:	0 (0 + 0)	Resultant Marks:	1 (1 + 0)

Total Questions:	15 (10 + 5)
Total Marks:	20 (10 + 10)
Exam Duration:	45 Minutes
Time Taken:	0 Minutes

Individual Question Statistics

Select Metric: Marks Obtained

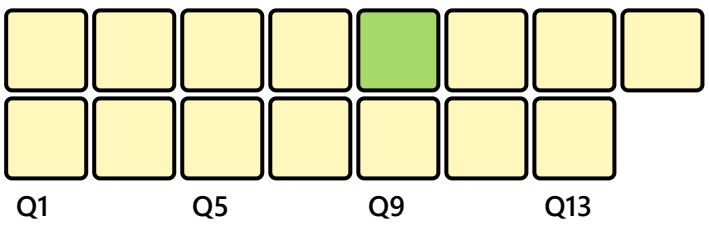

* Average Stats based on first-attempt stats of Top 10% (63) out of 626 users

EXAM RESPONSE EXAM STATS FEEDBACK

Technical

Q #1 Multiple Choice Type Award: 1 Penalty: 0.33 Digital Logic

In the circuit shown below, which logic function does this circuit generate?

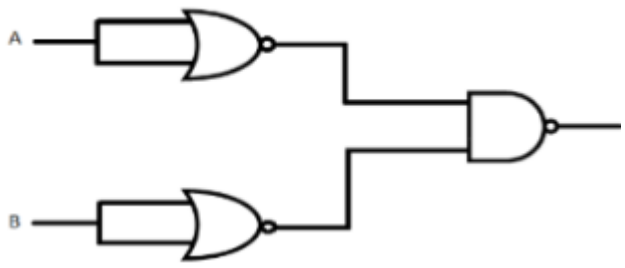

A. OR
B. AND
C. NOR
D. NAND

Your Answer: | Correct Answer: A | Not Attempted | Time taken: 00min 00sec | Discuss

Q #2 Multiple Choice Type | Award: 1 | Penalty: 0.33 | Digital Logic

The dual of the Boolean function $x + yz$ is:

A. $\bar{x}(\bar{y} + \bar{z})$
B. $x(y + z)$
C. $x + yz$
D. $\bar{x} + \bar{y}\bar{z}$

Your Answer: | Correct Answer: B | Not Attempted | Time taken: 00min 00sec | Discuss

Q #3 Multiple Choice Type | Award: 1 | Penalty: 0.33 | Digital Logic

Applying DeMorgan's theorem to the expression $\overline{\overline{(X + Y)} + \overline{Z}}$, we get

A. $(X + Y)Z$
B. $(\bar{X} + \bar{Y})\bar{Z}$
C. $(\bar{X} + \bar{Y})Z$
D. $(X + Y)\bar{Z}$

Your Answer: | Correct Answer: A | Not Attempted | Time taken: 00min 00sec | Discuss

Q #4 Multiple Choice Type | Award: 1 | Penalty: 0.33 | Digital Logic

Refer to the following figure, If $S_1 = 1$ and $S_2 = 0$ what will be the logic state at the output X ?

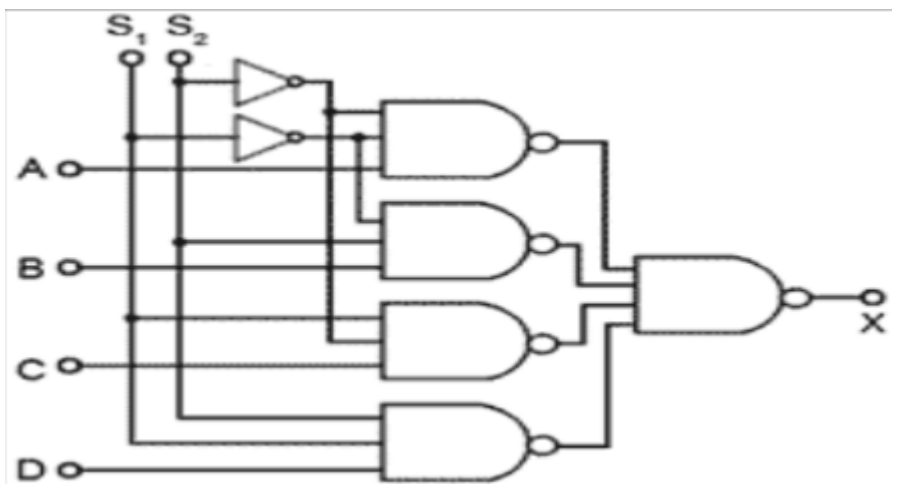

A. $\mathbf{X} = \mathbf{A}$
B. $\mathbf{X} = \mathbf{B}$
C. $\mathbf{X} = \mathbf{C}$
D. $\mathbf{X} = \mathbf{D}$

Your Answer: | Correct Answer: C | Not Attempted | Time taken: 00min 00sec | Discuss

Q #5 | Multiple Choice Type | Award: 1 | Penalty: 0.33 | Digital Logic

Refer to the following figure. If $\mathbf{A} = \mathbf{0}$ and $\mathbf{B} = \mathbf{1}$, what will be the logic states at $\mathbf{X}, \mathbf{Y}$ and $\mathbf{Z}$?

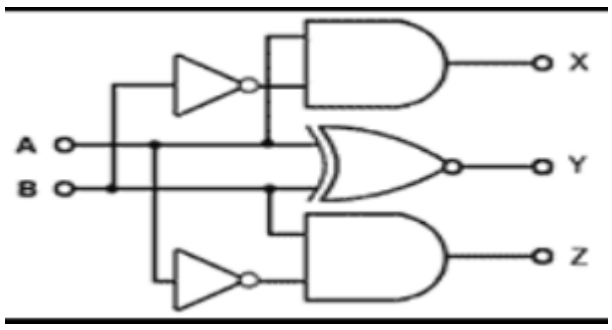

A. $\mathrm{X} = 1, \mathrm{Y} = 1, \mathrm{Z} = 0$
B. $\mathrm{X} = 1, Y = 0, Z = 0$
C. $\mathrm{X} = 0, \mathrm{Y} = 0, \mathrm{Z} = 1$
D. $X = 0, Y = 1, Z = 0$

Your Answer: | Correct Answer: C | Not Attempted | Time taken: 00min 00sec | Discuss

Q #6 | Multiple Choice Type | Award: 1 | Penalty: 0.33 | Digital Logic

The simplification of the Boolean expression $(\overline{\overline{A}B\overline{C}}) + (\overline{A\overline{B}C})$ is

A. 0
B. 1
C. $\mathbf{A}$
D. $\mathbf{BC}$

Your Answer: | Correct Answer: B | Not Attempted | Time taken: 00min 00sec | Discuss

Q #7 | Multiple Choice Type | Award: 1 | Penalty: 0.33 | Digital Logic

In the given truth table, $f(x, y)$ represent the Boolean function.

x	y	$f(x, y)$
0	0	1
0	1	0
1	0	0
1	1	1

A. $x \leftrightarrow y$
B. $x \wedge y$

C. $x \vee y$
D. $x \rightarrow y$

Your Answer: | Correct Answer: A | Not Attempted | Time taken: 00min 00sec | Discuss

Q #8 Multiple Choice Type | Award: 1 | Penalty: 0.33 | Digital Logic

$(A + C')(B' + C')$ simplifies to

A. $AC' + B'$

B. $C(A' + B')$

C. $BC' + A$

D. $AB' + C'$

Your Answer: | Correct Answer: D | Not Attempted | Time taken: 00min 00sec | Discuss

Q #9 Multiple Choice Type | Award: 1 | Penalty: 0.33 | Digital Logic

In digital logic, if $A \oplus B = C$, then which one of the following is true?

A. $A \oplus C = B$
B. $B \oplus C = A$
C. $A \oplus B \oplus C = 0$
D. Both (A) and (B)

Your Answer: | Correct Answer: N/A | Marks To All | Time taken: 00min 00sec | Discuss

Q #10 Multiple Choice Type | Award: 1 | Penalty: 0.33 | Digital Logic

In Boolean algebra $1 + 1 + 1 + 1 \ldots\ldots 800$ times ones $=$ _____ .

A. 1
B. 0
C. 11
D. 800

Your Answer: | Correct Answer: A | Not Attempted | Time taken: 00min 00sec | Discuss

Q #11 Multiple Choice Type | Award: 2 | Penalty: 0.67 | Digital Logic

Applying DeMorgan's Law to $f = \overline{\overline{\overline{AB} + \bar{C}(E + \bar{D})}}$ will result in:

A. $f = \bar{A} + \bar{B} + \bar{C} + \bar{E} + D$
B. $f = \bar{A}\bar{B}\bar{C} + E\bar{D}$
C. $f = \bar{A}\bar{B}\bar{C} + (E + \bar{D})$
D. $f = \bar{A} + \bar{B} + \bar{C} + \bar{E}D$

Your Answer: | Correct Answer: D | Not Attempted | Time taken: 00min 00sec | Discuss

Q #12 Multiple Choice Type | Award: 2 | Penalty: 0.67 | Digital Logic

The Boolean function obtained by adding an inverter to each and every input of an AND gate is:

A. OR
B. XOR
C. NAND
D. NOR

Your Answer: | Correct Answer: D | Not Attempted | Time taken: 00min 00sec | Discuss

Q #13 Multiple Choice Type | Award: 2 | Penalty: 0.67 | Digital Logic

What does the following circuit evaluate to?

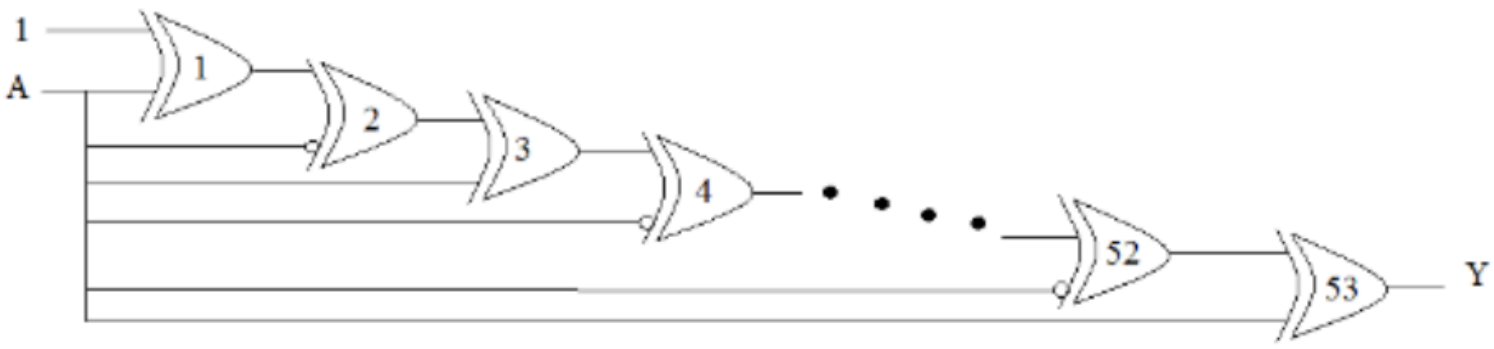

A. 0
B. 1
C. A'
D. A

Your Answer: | Correct Answer: C | Not Attempted | Time taken: 00min 00sec | Discuss

Q #14 Multiple Choice Type | Award: 2 | Penalty: 0.67 | Digital Logic

The logic circuit shown can be minimized to

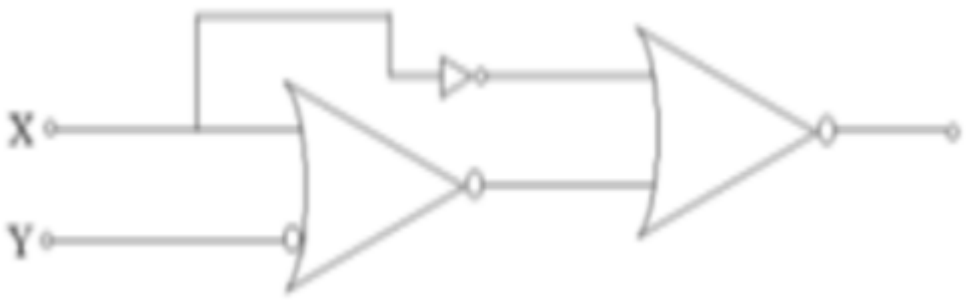

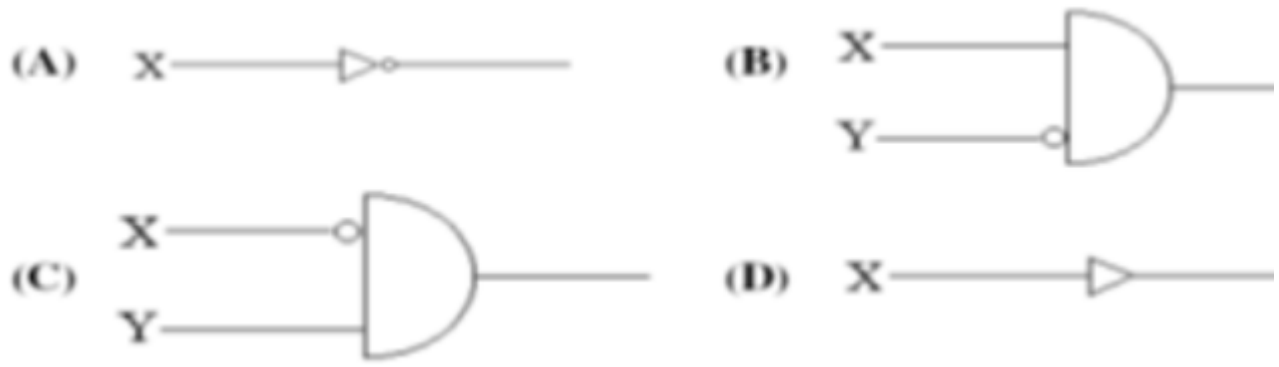

A. **A**
B. **B**
C. **C**
D. **D**

Your Answer: | Correct Answer: D | Not Attempted | Time taken: 00min 00sec | Discuss

Q #15 | Multiple Choice Type | Award: 2 | Penalty: 0.67 | Digital Logic

Simplification of the Boolean expression $AB + ABC + ABCD + ABCDE + ABCDEF$ yields which of the following results?

A. AB
B. $\mathrm{AB} + \mathbf{CD} + \mathbf{EF}$
C. $ABCDEF$
D. $\mathbf{A} + \mathbf{B} + \mathbf{C} + \mathbf{D} + \mathbf{E} + \mathbf{F}$

Your Answer: | Correct Answer: A | Not Attempted | Time taken: 00min 01sec | Discuss

Copyright & Stuff